Name _____ Date _____

Lesson Extra Practice:
Ratios

3.1

Write the ratio.

1. flies to lizards



2. cars : trucks



3. notebooks : pencils



4. hamburgers to hot dogs



Write the ratio. Then find and interpret the value of the ratio.

5. tubas : clarinets

6. trumpets : tubas

7. clarinets : tubas

8. trumpets : clarinets

Copyright © Big Ideas Learning, LLC.
All rights reserved.

Determine whether the ratios are equivalent. Explain.

9. 2 : 3 and 4 : 6

10. 5 : 8 and 8 : 14

11. 9 : 12 and 24 : 18

12. Your friend says that the two ratios are equivalent. Is your friend correct? Explain your reasoning.

$$3 : 5 \xrightarrow{\times 6} 18 : 30$$

Because you can multiply each number in the first ratio by 6 to obtain the numbers in the second ratio, the ratios are equivalent.

13. You have 28 red and blue marbles. The ratio of red to blue marbles is 1 : 6. How many blue marbles do you have?

14. You work a total of 8 hours per week. Your friend works a total of 32 hours every 4 weeks. Do you and your friend work the same number of hours per week? If not, who works more hours per week?

15. There are 5 pennies for every 6 quarters in a purse. Could there be a total of 30 coins in the purse when the purse only contains pennies and quarters? Explain.

Copyright © Big Ideas Learning, LLC.
All rights reserved.