Name _____ Date _____

Lesson Extra Practice:
Areas of Parallelograms

7.1

Find the area of the parallelogram.

1.

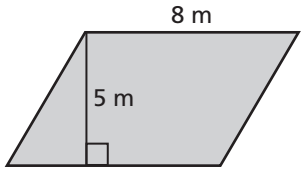

2.

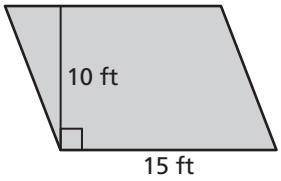

3.

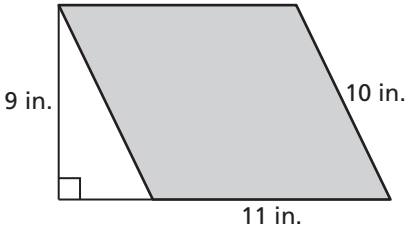

4.

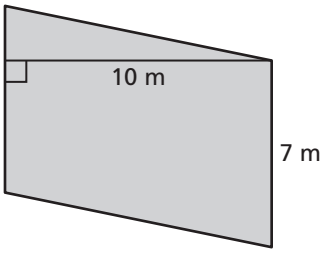

5. Area = _____ cm^2

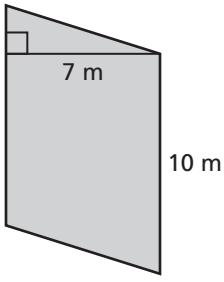

6. Area = _____ yd^2

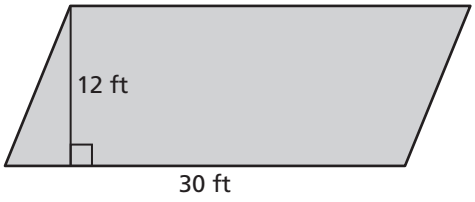

Copyright © Big Ideas Learning, LLC.
All rights reserved.

7. Your friend finds the area of the parallelogram. Is your friend correct? Explain your reasoning.

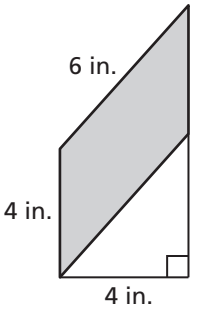

$A = 4(6) = 24$ in.^{2}

Find the missing dimension of the parallelogram described.

8. $b = 5$ ft, $h = ?$ ft, $A = 40$ ft^2

---

9. $b = ?$ mm, $h = 3$ mm, $A = 27$ mm^2

---

10. The area of a parallelogram-shaped carpet is 216 square feet. The carpet has a base of 18 feet. What is the height of the carpet?

---

11. You buy a pack of 12 parallelogram-shaped wall lights for your bedroom. Each light has a base of 8 inches and a height of 6 inches. What is the total area of the wall that the lights can cover?

Copyright © Big Ideas Learning, LLC.
All rights reserved.