Name _____ Date _____

Lesson Extra Practice:
Areas of Triangles

7.2

Find the area of the triangle.

1.

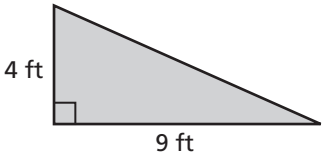

2.

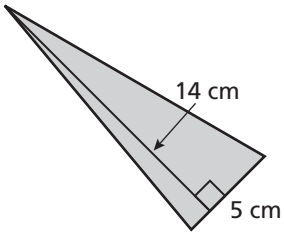

3.

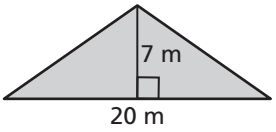

4.

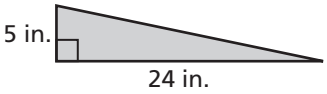

5. Your friend finds the area of the triangle. Is your friend correct? Explain your reasoning.

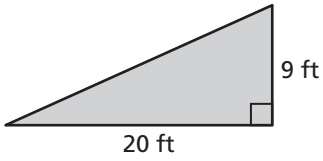

$A = \frac{1}{2}(20)(9) = 90 \text{ ft}^2$

Find the missing dimension of the triangle.

6. Area $= 32 \text{ m}^2$

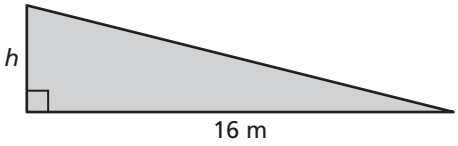

7. Area $= 1.5 \text{ in.}^2$

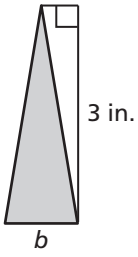

Copyright © Big Ideas Learning, LLC.
All rights reserved.

Find the area of the figure.

8.

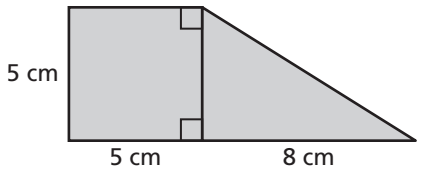

9.

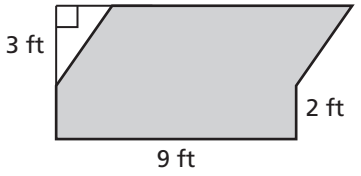

10. A sail in the shape of a triangle has an area of 60 square feet. The height of the sail is 12 feet. Find the base of the sail.

11. You are making a triangle-shaped pennant out of fabric. The base of the pennant is 5 inches, and the height is 13 inches. How much fabric do you need to make the pennant?

12. Triangle A and Triangle B have the same base length. The height of Triangle B is twice the height of Triangle A. How many times greater is the area of Triangle B?

13. You are repainting the front of your shed, including the doors. What area of the shed will be repainted? Explain your reasoning.

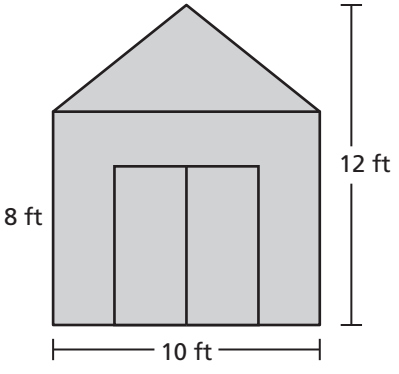

Copyright © Big Ideas Learning, LLC.
All rights reserved.