Name _____ Date _____

Lesson Extra Practice:
Areas of Trapezoids and Kites

7.3

Find the area of the figure.

1.

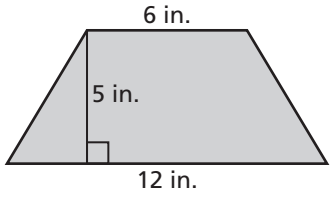

2.

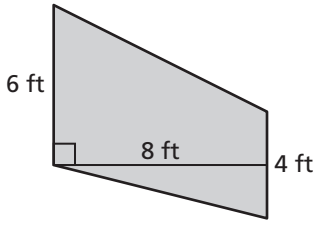

3.

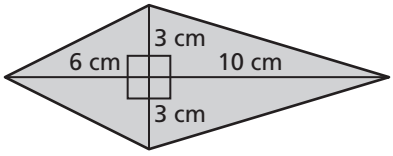

Find the area of the trapezoid.

4.

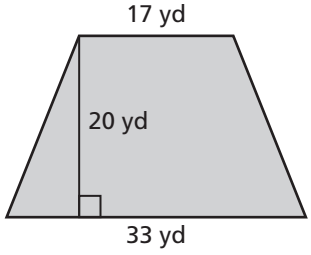

5.

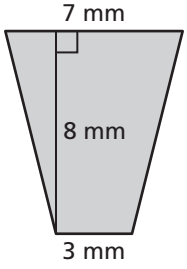

6.

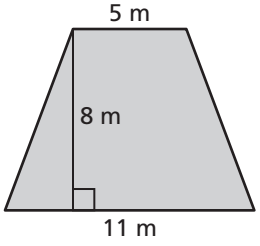

7. Your friend finds the area of the trapezoid.
Is your friend correct? Explain your reasoning.

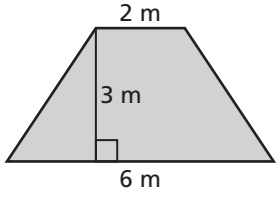

$A = \frac{1}{2}(3)(2)(6) = 18 \text{ m}^2$

Copyright © Big Ideas Learning, LLC.
All rights reserved.

Find the area of the figure.

8.

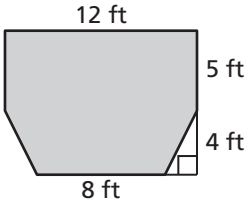

9.

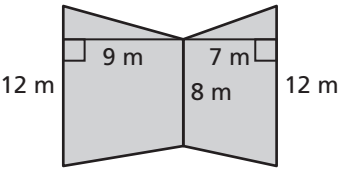

Find the height of the trapezoid.

10. Area = 42 in.^{2}

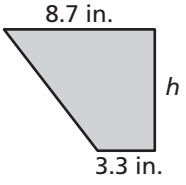

11. Area = 836 mm^2

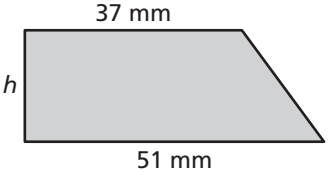

12. The triangle and the trapezoid have the same area. What is the base *b* of the triangle?

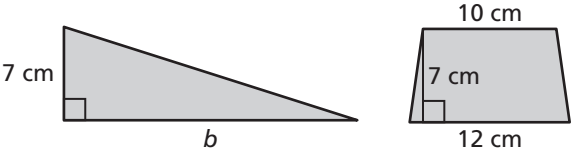

13. You are making a mosaic with trapezoid-shaped pieces. Each piece has a base of 5 inches, another base of 3 inches, and a height of 2 inches. How many pieces do you need to make a mosaic that is 1,800 square inches?

14. You can use a trapezoid with bases of 45 miles and 80 miles and height 50 miles to approximate the shape of Lake County, Minnesota. The population of Lake County is about 11,000. About how many people are there per square mile?

Copyright © Big Ideas Learning, LLC.
All rights reserved.