Name _____ Date _____

Lesson Extra Practice:
Three-Dimensional Figures

7.4

Find the numbers of faces, edges, and vertices of the solid.

1.

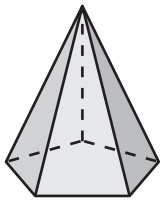

2.

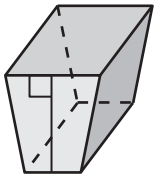

3.

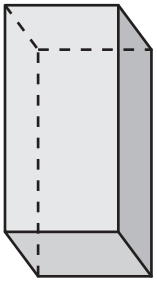

Draw the solid.

4. triangular pyramid

5. hexagonal pyramid

6. heptagonal prism

Draw the front, side, and top views of the solid.

7.

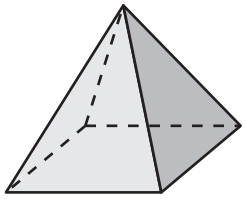

8.

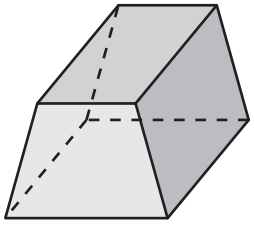

9.

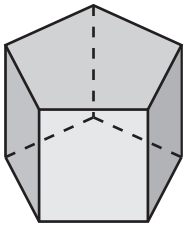

Copyright © Big Ideas Learning, LLC.
All rights reserved.

10. You are designing an end table in the shape of prism with hexagons as the bases.

a. Find the number of faces, edges, and vertices of the end table.

b. Draw the front, side, and top views of the end table.

---

11. Two of the three views of a solid are shown.

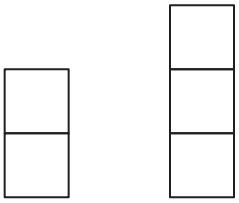

a. What is the greatest number of cubes in the solid?

b. What is the least number of cubes in the solid?

c. Draw the side views of both solids in parts (a) and (b).

Copyright © Big Ideas Learning, LLC.
All rights reserved.