Name _____ Date _____

Lesson Extra Practice:
Surface Areas of Prisms

7.5

Find the surface area of the prism.

1.

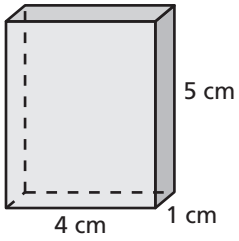

2.

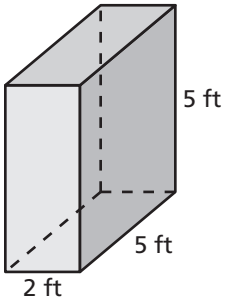

3.

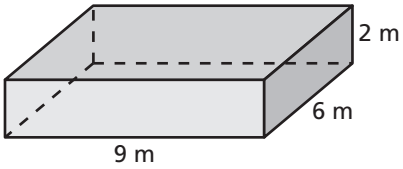

4.

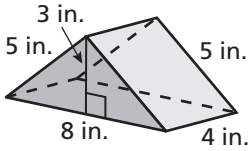

5.

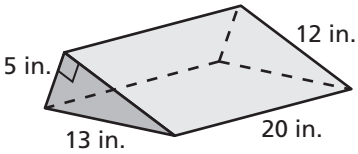

6.

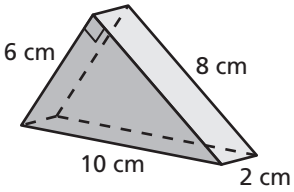

7.

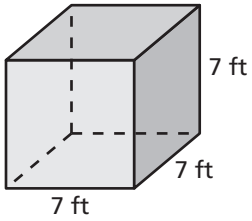

8.

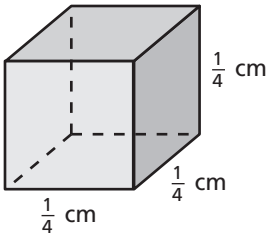

9.

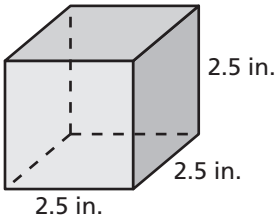

Copyright © Big Ideas Learning, LLC.
All rights reserved.

10. Your friend finds the surface area of the cube. Is your friend correct? Explain your reasoning.

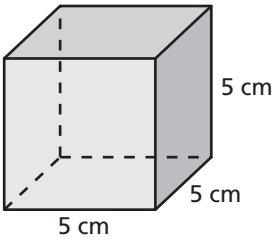

$$S = (s)^2 + (s)^2 + (s)^2$$
$$= 25 + 25 + 25$$
$$= 75$$

The surface are of the cube is 75 square centimeters.

---

11. A box is in the shape of a cube with edge lengths of 9 inches. Find the surface area of the box.

---

12. A bakery is designing a new cardboard container for single slices of pie. The containers will be in the shape of a triangular prism to perfectly fit the slices. What is the least amount of cardboard needed to make a container for the slice shown?

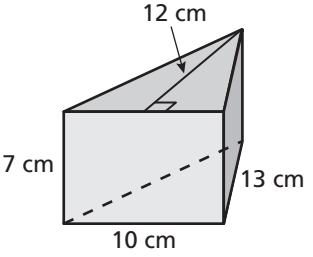

---

13. A shipping crate in the shape of a rectangular prism measures 5 feet by 4 feet by 3 feet.

a. Find the surface area of the crate.

b. By how much does the surface area of the crate increase when its length, width, and height are each increased by 1 foot?

Copyright © Big Ideas Learning, LLC.
All rights reserved.