Name _____ Date _____

Lesson Extra Practice:
Surface Areas of Pyramids

7.6

Find the surface area of the pyramid.

1.

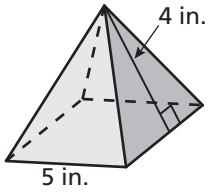

2.

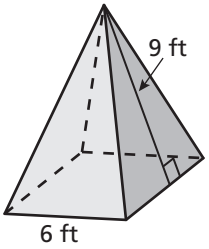

3.

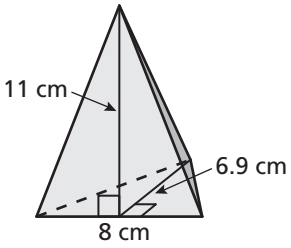

4.

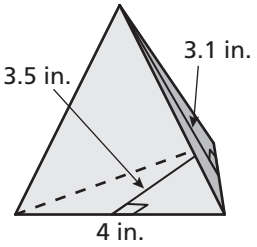

5.

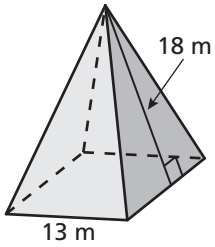

6.

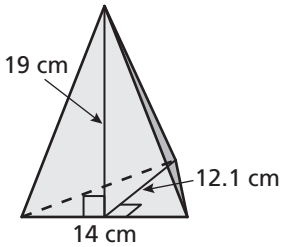

Copyright © Big Ideas Learning, LLC.
All rights reserved.

7. The top of a lantern is shaped like a square pyramid. The side lengths of the base are equal. Find the surface area of the top of the lantern.

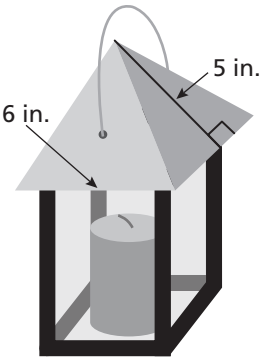

---

8. The surface area of the square pyramid shown is 120 square meters. What is the value of x?

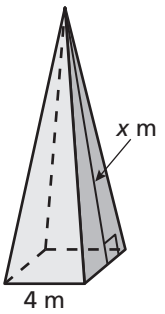

---

9. You are painting sets of trees for a model of your town. Each tree is shaped like a triangular pyramid. The triangular faces of the first tree you paint have bases of 6 millimeters and heights of 13 millimeters, and the triangular faces of the second tree you paint have bases of 7 millimeters and heights of 12 millimeters. If you do not paint the base of either tree, which tree uses more paint? How much more?

Copyright © Big Ideas Learning, LLC.
All rights reserved.