Name _____ Date _____

Lesson Extra Practice:
Volumes of Rectangular Prisms

7.7

Find the volume of the prism.

1.

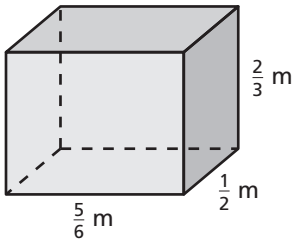

2.

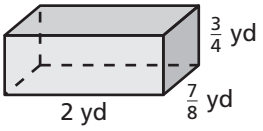

Find the missing dimension of the prism.

3. Volume = 231 in.^{3}

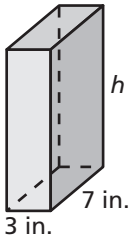

4. Volume = 6,400 m^3

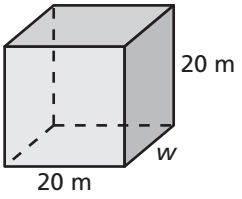

5. Volume = 18,000 cm^3

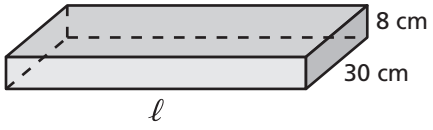

6. Volume = 16 ft^3

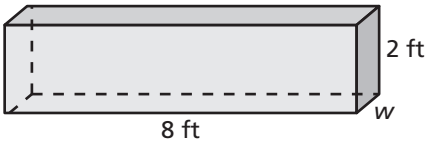

Copyright © Big Ideas Learning, LLC.
All rights reserved.

7. An office cubicle measures 7 feet by 8 feet with a 5-foot wall. What is the volume of the cubicle?

---

8. A cube with side length 4 centimeters is 25% full of sand. What is the volume of the sand?

---

9. A cube has side lengths of 2 meters. Find the change in the volume of the cube if the length of the sides is doubled.

---

10. The area of the shaded face is 72 square inches. What is the volume of the rectangular prism?

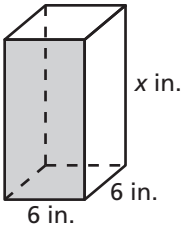

---

11. A local business delivers water to fill swimming pools. It charges 7 cents per cubic foot. How much does it cost to fill a pool that is 6 yards wide, 12 yards long, and 1.5 yards deep?

Copyright © Big Ideas Learning, LLC.
All rights reserved.