Name _____ Date _____

Grade 6 Chapter 7 Chapter Practice Test

1 Find the area of the parallelogram.

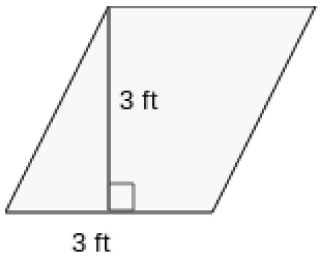

$A =$ 9 ft^2

= = = =

Name _____ Date _____

Grade 6 Chapter 7 Chapter Practice Test

4 Find the area of the trapezoid.

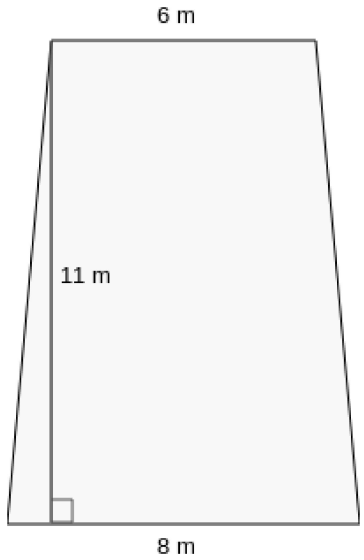

$A =$ 77 m^2

= = = =

Name _____ Date _____

Grade 6 Chapter 7 Chapter Practice Test

7 Find the surface area of the rectangular prism.

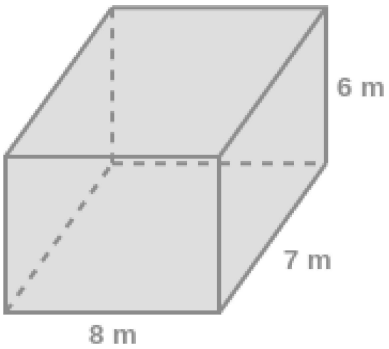

$SA =$ 292 m^2

= = = =

Name _____ Date _____

Grade 6 Chapter 7 Chapter Practice Test

9 Find the volume of the prism. Write the answer as a fraction in simplest form.

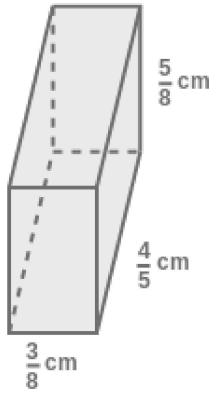

$V = \frac{3}{16}$ cm^3

= = = =

Name _____ Date _____

Grade 6 Chapter 7 Chapter Practice Test

12 A triangle has a base of 8 feet and a height of 6 feet. By how much does the height need to increase for the area to increase by 2 square feet? Write your answer as a decimal.

The height needs to increase by 0.5 feet.

= = = =