Name _____ Date _____

Lesson Extra Practice:
Circles and Circumference

9.1

Find the radius of the circle.

1.

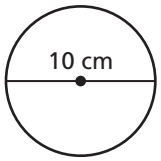

2.

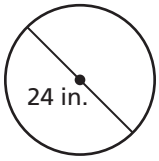

3.

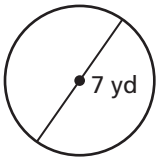

Find the diameter of the circle.

4.

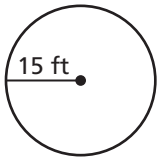

5.

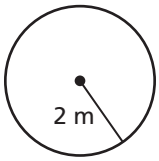

6.

Find the circumference of the circle.

7.

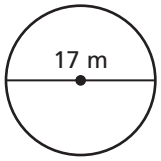

8.

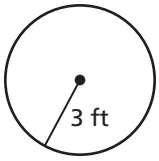

9.

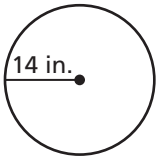

Find the perimeter of the semicircular region.

10.

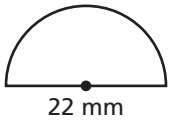

11.

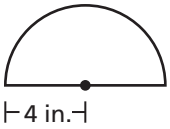

12.

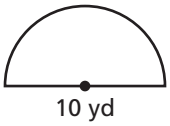

Copyright © Big Ideas Learning, LLC.
All rights reserved.

13. A circular ink spot has a circumference of 25.12 millimeters. A minute later, it has a circumference of 75.36 millimeters.

a. Estimate the diameter of the ink spot each minute.

b. How many times greater does the ink spot grow?

---

14. You are enclosing a circular flower garden with a fence that costs $2.99 per foot. The radius of the garden is 7 feet. How much will it cost to buy the fence?

---

15. Find the perimeter of the semicircular tabletop.



---

16. A carousel has a diameter of 8 yards.

a. What is the circumference of the carousel?

b. If a point on the edge of the carousel travels 100 yards, how many rotations does it make?

---

17. A tree has a circumference of 94.25 centimeters. After one year, the circumference increases 6.28 centimeters. What is the radius of the tree after one year?

Copyright © Big Ideas Learning, LLC.
All rights reserved.