Name _____ Date _____

Lesson Extra Practice:
Areas of Circles

9.2

Find the area of the circle.

1.

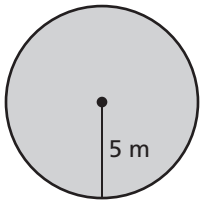

2.

3.

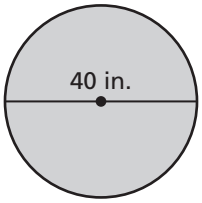

4.

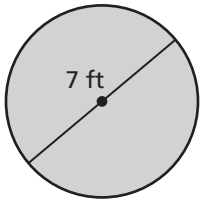

5.

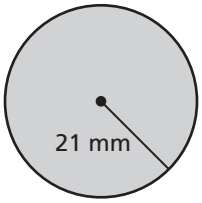

6.

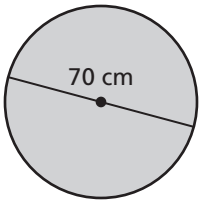

Find the area of the semicircle.

7.

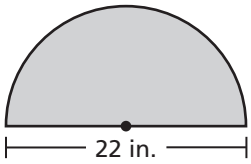

8.

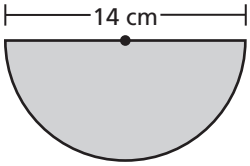

9.

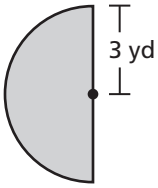

10. Your friend finds the area of a circle with a diameter of 9 inches. Is your friend correct? Explain.

$$\begin{aligned} \text{Area} &= \pi r^2 \\ &\approx 3.14 \cdot 4.5 \cdot 2 \\ &= 28.26 \text{ square inches} \end{aligned}$$

Copyright © Big Ideas Learning, LLC.
All rights reserved.

11. The circumference of a circular table top is 20π centimeters. What is the area of the table top?

---

12. A circular patio has a radius of 4 yards. The patio is expanded so that the radius increases by 2 yards. By how many square yards does the area of the patio increase?

---

13. Find the area of the circle in square feet.

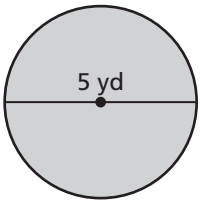

---

14. A small pizza has a diameter of 10 inches and a large pizza has a diameter of 14 inches. If your friend eats a small pizza and you eat a large pizza, how much more pizza do you eat than your friend?

---

15. You want to put a semicircle-shaped window above a door that is 3 feet wide and 6.5 feet tall. How much glass (in square inches) do you need if the window is as wide as the door?

Copyright © Big Ideas Learning, LLC.
All rights reserved.