Name _____ Date _____

Lesson Extra Practice:
Perimeters and Areas of Composite Figures

9.3

Estimate the perimeter and the area of the shaded figure.

1.

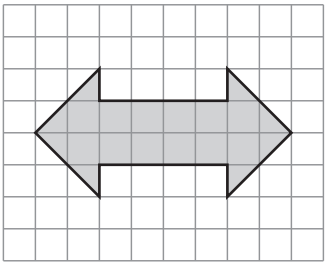

2.

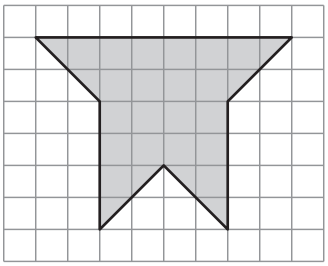

3.

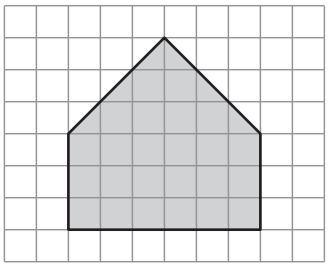

Find the perimeter and the area of the figure.

4.

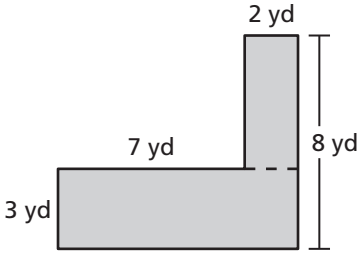

5.

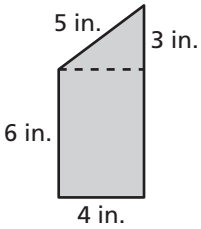

6.

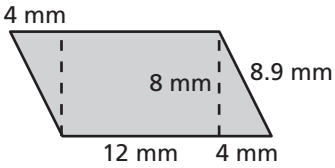

7.

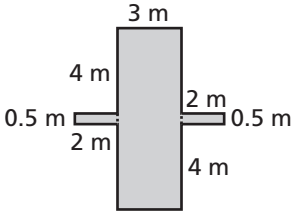

8.

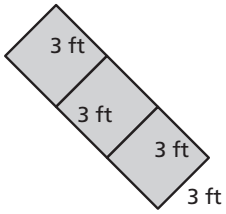

9.

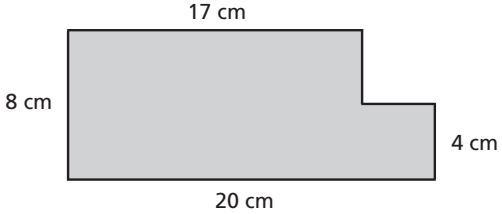

Copyright © Big Ideas Learning, LLC.
All rights reserved.

10. Your friend finds the perimeter of the figure. Is your friend correct? Explain your reasoning.

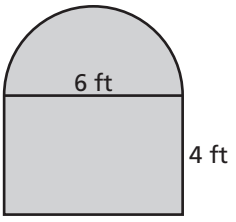

$$\text{Perimeter} \approx \frac{3.14 \cdot 6}{2} + 4 + 6 + 4$$
$$= 23.42 \text{ ft}$$

---

11. The dimensions of a basketball court and bleachers is shown. A fence is to be installed that follows the edges of the court and bleachers (except for their shared edge). The fence costs $8.99 per foot. How much will the fence cost?

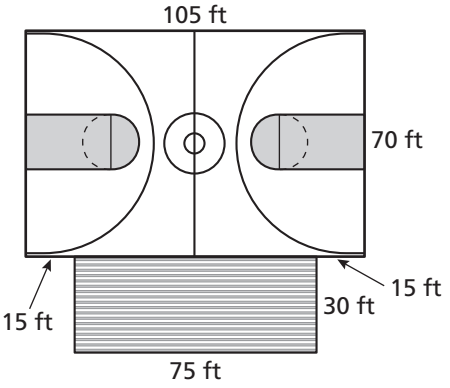

---

12. A backyard that is 20 yards wide and 30 yards long contains a semicircle-shaped garden with a diameter of 6 yards. The rest of the yard is grass.

a. Find the percent of the yard that is grass.

b. If you mow the grass at a rate of 28 square yards per minute, how long (in minutes) does it take you to mow the grass?

Copyright © Big Ideas Learning, LLC.
All rights reserved.