Name _____ Date _____

Lesson Extra Practice:
Finding Unknown Angle Measures

9.5

Use the figure shown.

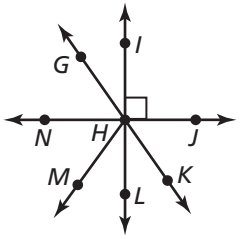

1. Name a pair of adjacent angles.

2. Name a pair of complementary angles.

3. Name a pair of supplementary angles.

4. Name a pair of vertical angles.

Tell whether the angles are *adjacent*, *vertical*, or *neither*.

5.

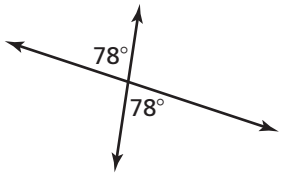

6.

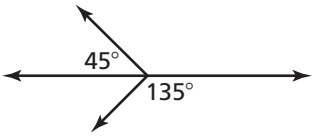

7.

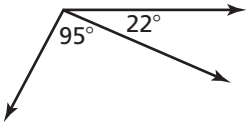

Tell whether the angles are *complementary*, *supplementary*, or *neither*.

8.

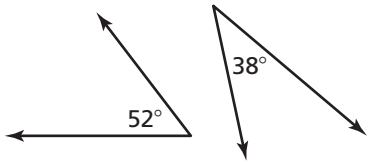

9.

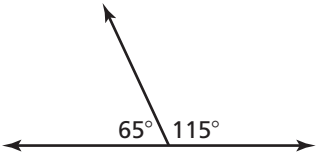

10.

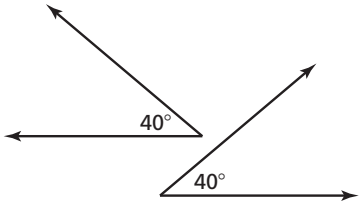

---

11. Your friend names a pair of supplementary angles. Is your friend correct? Explain.

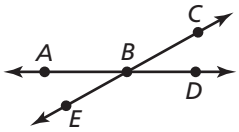

$\angle ABC$ and $\angle EBD$ are supplementary angles.

Copyright © Big Ideas Learning, LLC.
All rights reserved.

Classify the pair of angles. Then find the value of x.

12.

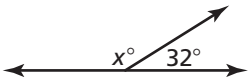

13.

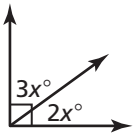

14.

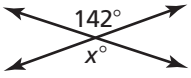

15.

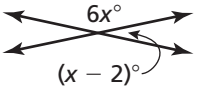

Complete each sentence with *always*, *sometimes*, or *never*.

16. If x and y are supplementary angles, then x is _____ obtuse.

17. If x and y are right angles, then x and y are _____ complementary.

18. If x and y are vertical angles, then y _____ has the same measure as x.

19. If x and y are adjacent angles, then x and y are _____ acute.

20. You are doing a project with stained glass. You draw a sketch to figure out how to cut each piece of glass. Find the angle measure for each color.

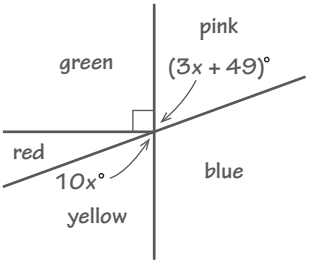

Copyright © Big Ideas Learning, LLC.
All rights reserved.