Name _____ Date _____

Grade 7 Chapter 9 Chapter Practice Test

1 Find the circumference of the circle. Round your answer to two decimal places, if necessary.

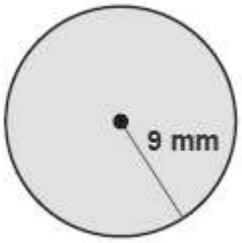

$C \approx$ 56.52 mm

= = = =

Name _____ Date _____

Grade 7 Chapter 9 Chapter Practice Test

4 Find the area of the figure.

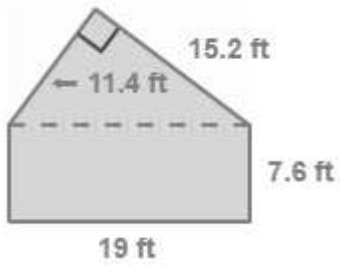

The area is 231.04 square feet.

= = = =

Name _____ Date _____

Grade 7 Chapter 9 Chapter Practice Test

8 Find the value of x.

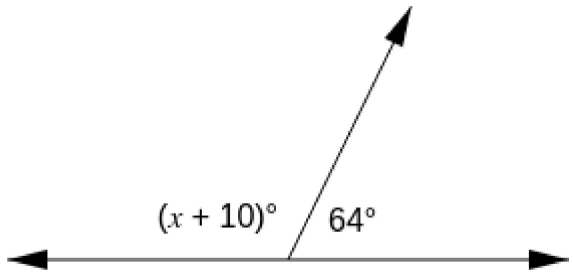

$x =$ 106

= = = =

Name _____ Date _____

Grade 7 Chapter 9 Chapter Practice Test

11 A photograph of a full moon is enlarged so that the diameter appears 3 times larger. How much larger does the circumference of the moon appear?

3 times larger

= = = =

Name _____ Date _____

Grade 7 Chapter 9 Chapter Practice Test

13 You put a barrier around the garden and cover it with a layer of mulch. The barrier costs $\$1.25$ per foot. One bag of mulch covers 10 square feet and costs $\$3.00$. How much do you spend?

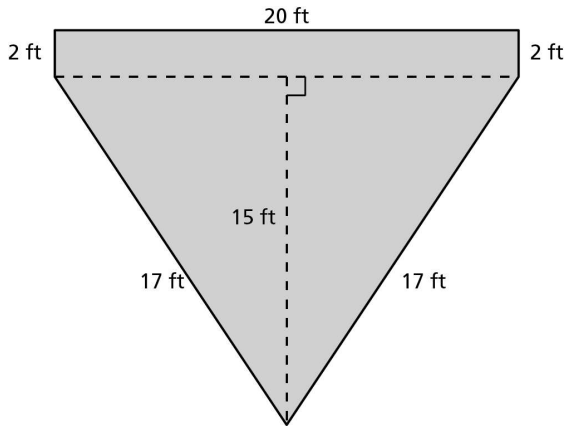

$\$$ 129.50

= = = =