Name _____ Date _____

# Lesson Extra Practice:
## Box-and-Whisker Plots

10.5

Make a box-and-whisker plot for the data.

**1.** Miles per gallon: 18, 30, 24, 19, 22, 34, 13, 12, 20, 25, 28, 17

**2.** Numbers of take-out orders: 26, 2, 17, 25, 18, 20, 21, 15, 29, 27, 22

**3.** The box-and-whisker plot represents the numbers of cocoons in each butterfly tent.

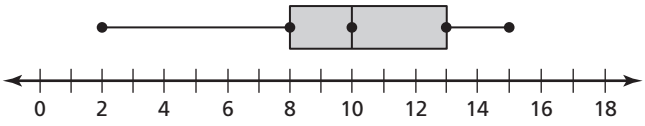


**a.** What percent of the butterfly tents contain at most 10 cocoons?

**b.** Are the data more spread out below the first quartile or above the third quartile? Explain.

**c.** Find and interpret the interquartile range of the data.

Copyright © Big Ideas Learning, LLC.
All rights reserved.

**4.** Your friend makes a box-and-whisker plot for the data shown. Is your friend correct? Explain your reasoning.

37, 32, 26, 36, 28, 24, 34, 29, 30

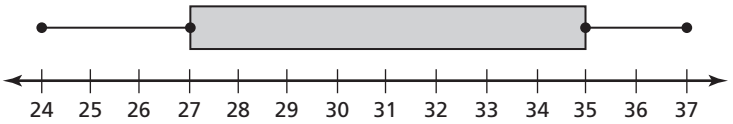


---

Identify the shape of the distribution. Explain.

**5.**

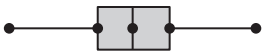

**6.**

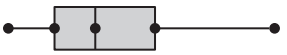

---

**7.** The double box-and-whisker plot represents the prices of video games at two different stores.

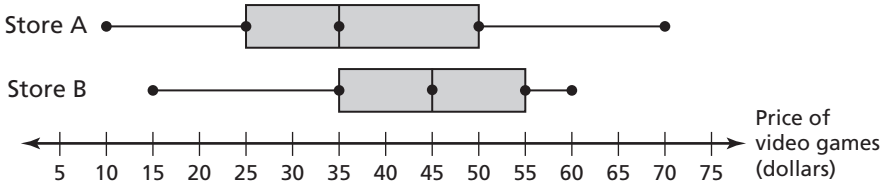


**a.** Which store's prices are more spread out?

**b.** You randomly buy one game from each store. Which game is more likely to cost more than $45? Explain

---

**8.** Write a data set with 12 values that has a skewed left box-and-whisker plot.



Copyright © Big Ideas Learning, LLC.
All rights reserved.