**NAME:** _____

**DIRECTIONS** Solve each problem.

**1.**
$$\begin{array}{r} 30 \\ +\ 16 \\ \hline \end{array}$$

**2.** 7 x 8 = _____

**3.** 30 ÷ 6 = _____

**4.** What is the place value of 6 in the number 6,029?

_____

**5.** Write 0.31 as a fraction.

_____

**6.** What number comes next in the sequence? 1,475; 1,575; 1,675;

_____

**7.** 59 + _____ = 66

**8.** _____ – 14 = 38

**9.** What is the volume of the prism?

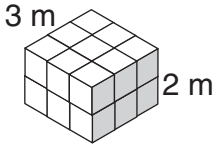


_____

**10.** Name the shape that is located at (F,4).

_____

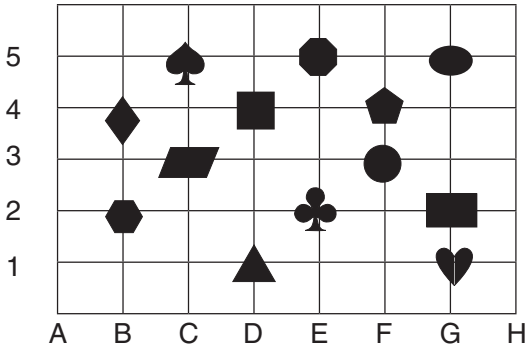


**11.** Record the data in the table.

Mrs. Cally's class sold boxes of cookies to raise money.

On day 1, 32 boxes were sold.
On day 2, 29 boxes were sold.
On day 3, 30 boxes were sold.
On day 4, 32 boxes were sold.

| | | | |
|---|---|---|---|
| | | | |
| | | | |

**12.** In magic squares, each row, column, and diagonal adds up to the same number. Complete the magic square, using 1–9 only once.

| | | |
|---|---|---|
| | 3 | |
| | 5 | |
| 6 | 7 | |

**SCORE**

1. Ⓨ Ⓝ
2. Ⓨ Ⓝ
3. Ⓨ Ⓝ
4. Ⓨ Ⓝ
5. Ⓨ Ⓝ
6. Ⓨ Ⓝ
7. Ⓨ Ⓝ
8. Ⓨ Ⓝ
9. Ⓨ Ⓝ
10. Ⓨ Ⓝ
11. Ⓨ Ⓝ
12. Ⓨ Ⓝ

___ / 12
**Total**

DAY 2

**NAME:** _____

**DIRECTIONS** Solve each problem.

**SCORE**

1. Ⓨ Ⓝ
2. Ⓨ Ⓝ
3. Ⓨ Ⓝ
4. Ⓨ Ⓝ
5. Ⓨ Ⓝ
6. Ⓨ Ⓝ
7. Ⓨ Ⓝ
8. Ⓨ Ⓝ
9. Ⓨ Ⓝ
10. Ⓨ Ⓝ
11. Ⓨ Ⓝ
12. Ⓨ Ⓝ

___ / 12
**Total**

**1.** 60 – 8 = _____

**2.** Multiply 6 and 4.

_____

**3.** $5\overline{)45}$

**4.** 8,000 + 500 + 40 + 9 = _____

**5.** How many tenths are in $\frac{3}{10}$?

_____

**6.** What number comes next in the sequence? 448, 438, 428,

_____

**7.** _____ + 36 = 125

**8.** 65 – ☐ = 46

**9.** Write the time shown.

_____

**10.** Name the triangle with three equal sides.

_____

**11.** Using the spinner below, what is the probability you will spin red?

_____

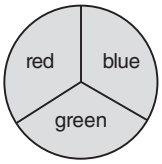


**12.** A welder can make 2 cuts in a metal bar in 6 minutes. At the same speed, how long will it take him to make 5 cuts in the bar?

_____


© Shell Education

**NAME:** _____

**DIRECTIONS** Solve each problem.

**1.** 29 + 35 = _____

**2.** 5 • 4 = _____

**3.** 42 ÷ 6 = _____

**4.** Round 1,654 to the nearest hundred.

_____

**5.** Is $\frac{1}{4}$ greater than, less than, or equal to $\frac{3}{8}$?

_____

**6.** 45 ÷ 9 + 7= _____

**7.** 6 ☐ 5 = 30

**8.** 180 ÷ ☐ = 9

**9.** Do you use A.M. or P.M. to write 6:35 in the evening?

_____

**10.** How many centimeters are in 39 millimeters?

_____

**11.**

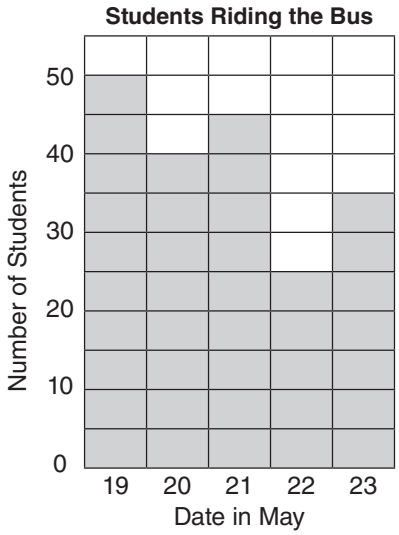


How many students rode the bus on May 20th?

_____

**12.** A small bag of pretzels costs $0.99 and contains 4 ounces. A large bag of pretzels costs $2.99 and contains 15 ounces. Which is the better buy?

_____

**SCORE**

1. Ⓨ Ⓝ
2. Ⓨ Ⓝ
3. Ⓨ Ⓝ
4. Ⓨ Ⓝ
5. Ⓨ Ⓝ
6. Ⓨ Ⓝ
7. Ⓨ Ⓝ
8. Ⓨ Ⓝ
9. Ⓨ Ⓝ
10. Ⓨ Ⓝ
11. Ⓨ Ⓝ
12. Ⓨ Ⓝ

___ / 12
**Total**

DAY 4

NAME: _____

**DIRECTIONS** Solve each problem.

**SCORE**

1. Ⓨ Ⓝ
2. Ⓨ Ⓝ
3. Ⓨ Ⓝ
4. Ⓨ Ⓝ
5. Ⓨ Ⓝ
6. Ⓨ Ⓝ
7. Ⓨ Ⓝ
8. Ⓨ Ⓝ
9. Ⓨ Ⓝ
10. Ⓨ Ⓝ
11. Ⓨ Ⓝ
12. Ⓨ Ⓝ

___ / 12 Total

**1.** 32 − 19

**2.** 4 x 7 = _____

**3.** 270 ÷ 3 = _____

**4.** $6^2$ = _____

**5.** Write 0.1 as a percentage.

_____

**6.** 6 + 1 • 24 = _____

**7.** 149 − ☐ = 72

**8.** 95 ☐ 23 = 118

**9.** How many days are in one year?

_____

**10.** Complete the chart for the shape below.



| | |
|---|---|
| Name the polygon. | |
| How many sides does the shape have? | |
| How many angles does the shape have? | |
| Does the shape have symmetry? | |
| Is it a plane shape or solid shape? | |

**11.** Imagine that you write each letter of the word *EXCELLENT* on a different card and then shuffle the cards. You turn the deck facedown on a table and turn over the top card. What is the probability that you will turn over a *T*?

_____

**12.** Trena's jump rope is 3.5 feet long. Jackie's is 3.8 feet long. How much longer is Jackie's jump rope than Trena's?

_____


© Shell Education

**NAME:** _____

**DIRECTIONS** Solve each problem.

**1.**
$$\begin{array}{r} 20 \\ +\ 12 \\ \hline \end{array}$$

**2.** 9 x 9 = _____

**3.** 5 $\overline{)35}$

**4.** What is the numeral for fifteen?

_____

**5.** $\frac{1}{8}$ of 32 is _____.

**6.** Find the missing number.

3,296; 3,286; _____; 3,266

**7.** 140 ÷ $\square$ = 10

**8.** Solve for $x$ when $x + 9 = 49$.

$x$ = _____

**9.** Calculate the area of a square with 7 cm sides.

_____

**10.** Use a protractor to measure the angle. Then identify it as either *acute*, *reflex*, *obtuse*, or *straight*.

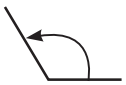

| | |
|---|---|
| Size | |
| Name | |

**11.** What is the mean of this set of data?

45, 31, 26, 46

_____

**12.** A snail is climbing a brick wall that is 15 m high. It climbs up 3 m every day but slides down 1 m every night. How many days will it take to reach the top of the wall?

_____

**SCORE**

1. Ⓨ Ⓝ
2. Ⓨ Ⓝ
3. Ⓨ Ⓝ
4. Ⓨ Ⓝ
5. Ⓨ Ⓝ
6. Ⓨ Ⓝ
7. Ⓨ Ⓝ
8. Ⓨ Ⓝ
9. Ⓨ Ⓝ
10. Ⓨ Ⓝ
11. Ⓨ Ⓝ
12. Ⓨ Ⓝ

___ / 12
**Total**

DAY 6

NAME: _____

**DIRECTIONS** Solve each problem.

**SCORE**

1. Ⓨ Ⓝ
2. Ⓨ Ⓝ
3. Ⓨ Ⓝ
4. Ⓨ Ⓝ
5. Ⓨ Ⓝ
6. Ⓨ Ⓝ
7. Ⓨ Ⓝ
8. Ⓨ Ⓝ
9. Ⓨ Ⓝ
10. Ⓨ Ⓝ
11. Ⓨ Ⓝ
12. Ⓨ Ⓝ

___ / 12
**Total**

**1.** 40 – 9 = _____

**2.** 7 x 6 = _____

**3.** 42 ÷ 7 = _____

**4.** What is 1,000 less than 1,416?

_____

**5.** Is $\frac{3}{5}$ greater than, less than, or equal to $\frac{6}{10}$?

_____

**6.** 27 – 13 + 18 = _____

**7.** Solve for *x*.
*x* – 25 = 53

*x* = _____

**8.** $\frac{12}{20} = \frac{3}{\square}$

**9.** How many minutes pass from 4:21 P.M. to 4:59 P.M.?

_____

**10.** Draw a top view of the cylinder.



**11.** Which spinner has a 25% probability of landing on red?

_____

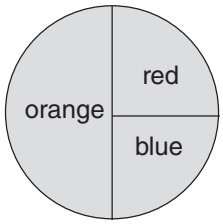

**Spinner A**

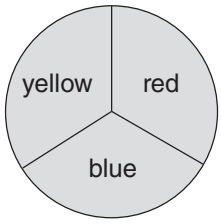

**Spinner B**

**12.** Compare a triangular pyramid with a triangular prism.

| | Faces | Edges | Vertices |
|---|---|---|---|
| Triangular Pyramid | | | |
| Triangular Prism | | | |


© Shell Education

NAME: _____

**DIRECTIONS** Solve each problem.

**1.** 45 + 27 = _____

**2.**
$$\begin{array}{r} 6 \\ \times\ 8 \\ \hline \end{array}$$

**3.** Calculate 36 divided by 6.

_____

**4.** List the factors of 40.

_____

**5.** Write 0.61 as a fraction.

_____

**6.** 126 ÷ 9 • 2 = _____

**7.** Solve for *n*.

$\frac{1}{4} \cdot n = 4$

*n* = _____

**8.** ☐ x 10 = 30

**9.** Calculate the perimeter of the shape.

_____

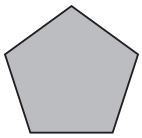

4 cm

**10.** How many faces are on the solid?

_____

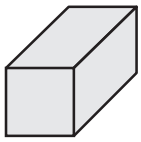

**11.** Two red cubes, two green cylinders, and three yellow rectangular prisms were put in a bag. If you reach into the bag and pull out an object, what is the probability that you will pull out a green cylinder?

_____

**12.** Shaundra is 5 years older than her brother. If the sum of their ages is 31, how old is Shaundra?

_____

**SCORE**

1. Ⓨ Ⓝ
2. Ⓨ Ⓝ
3. Ⓨ Ⓝ
4. Ⓨ Ⓝ
5. Ⓨ Ⓝ
6. Ⓨ Ⓝ
7. Ⓨ Ⓝ
8. Ⓨ Ⓝ
9. Ⓨ Ⓝ
10. Ⓨ Ⓝ
11. Ⓨ Ⓝ
12. Ⓨ Ⓝ

___ / 12
**Total**

DAY 8

NAME: _____

**DIRECTIONS** Solve each problem.

**SCORE**

1. Ⓨ Ⓝ
2. Ⓨ Ⓝ
3. Ⓨ Ⓝ
4. Ⓨ Ⓝ
5. Ⓨ Ⓝ
6. Ⓨ Ⓝ
7. Ⓨ Ⓝ
8. Ⓨ Ⓝ
9. Ⓨ Ⓝ
10. Ⓨ Ⓝ
11. Ⓨ Ⓝ
12. Ⓨ Ⓝ

___ / 12
Total

**1.** $\begin{array}{r} 37 \\ -\ \ 8 \\ \hline \end{array}$

**2.** 4 • 9 = _____

**3.** 280 ÷ 4 = _____

**4.** What number is 10 more than 8,358?

_____

**5.** $\frac{1}{3}$ of 15 is _____.

**6.** Write the rule for this pattern.
3, 6, 9, 12, 15

_____

**7.** 84 $\boxed{\phantom{0}}$ 56 = 28

**8.** Find *a* when 120 ÷ *a* = 12.

*a* = _____

**9.** How many grams are in 9.5 kilograms?

_____

**10.** Are opposite sides equal in length on a rectangle?

_____

**11.** Which number is the outlier in this data set?
9, 12, 32, 8, 11

_____

**12.** The Handy family drinks 20 pints of milk each week. How many gallons of milk do they drink each week?

_____


© Shell Education

**NAME:** _____

**DIRECTIONS** Solve each problem.

**1.** 38 + 6 = _____

**2.** 5 x 9 = _____

**3.** What is the quotient when 63 is divided by 9?

_____

**4.** List the first four multiples of 2.

_____

**5.** Is $\frac{2}{3}$ equal to $\frac{6}{10}$?

_____

**6.** Write the rule for this pattern.
5, 20, 80, 320

_____

**7.** 9 x ☐ = 99

**8.** 35 ☐ 26 = 61

**9.** How many millimeters are in 6.5 centimeters?

_____

**10.** What is the diameter of a circle with a 4.2 cm radius?

_____

**11.** **Cookies Baked**

| | |
|---|---|
| Molly |  |
| Jake |  |
| Lucas |  |
| Mindy |  |

= 1 dozen cookies

Who baked the most cookies?

_____

**12.** Nine children join hands to form a circle. How many hands are joined?

_____

**SCORE**

1. Ⓨ Ⓝ
2. Ⓨ Ⓝ
3. Ⓨ Ⓝ
4. Ⓨ Ⓝ
5. Ⓨ Ⓝ
6. Ⓨ Ⓝ
7. Ⓨ Ⓝ
8. Ⓨ Ⓝ
9. Ⓨ Ⓝ
10. Ⓨ Ⓝ
11. Ⓨ Ⓝ
12. Ⓨ Ⓝ

___ / 12
Total

DAY 10

NAME: _____

**DIRECTIONS** Solve each problem.

**SCORE**

1. Ⓨ Ⓝ
2. Ⓨ Ⓝ
3. Ⓨ Ⓝ
4. Ⓨ Ⓝ
5. Ⓨ Ⓝ
6. Ⓨ Ⓝ
7. Ⓨ Ⓝ
8. Ⓨ Ⓝ
9. Ⓨ Ⓝ
10. Ⓨ Ⓝ
11. Ⓨ Ⓝ
12. Ⓨ Ⓝ

___ / 12
Total

**1.** –5 + 10 = _____

**2.** 9 x 6 = _____

**3.** 8 $\overline{)40}$

**4.** How many digits are in 35,920?

_____

**5.** Write 0.7 as a percentage.

_____

**6.** 192 ÷ 2 + 20 = _____

**7.** Solve for *s*.
26*s* = 78

*s* = _____

**8.** 160 ☐ 10 = 16

**9.** Record the line length shown.

_____

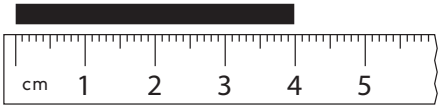


**10.** Use a protractor to measure the angle.

_____

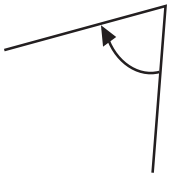

**11.** A box of a dozen donuts contains 5 chocolate donuts, 4 sprinkled donuts, 2 lemon donuts, and 1 raspberry-filled donut. If you reach in a box and grab one donut, what is the probability that it will be a raspberry-filled donut?

_____

**12.** Complete the addition table.

| + | 22 | 26 | 33 | 35 | 41 | 46 |
|---|---|---|---|---|---|---|
| 19 | | | | | | |
| 29 | | | | | | |
| 39 | | | | | | |
| 49 | | | | | | |


© Shell Education